Bedfordview Primary School
TERM 2 TEST

Name: Memo	Grade 5 : __
Subject: Natural Science and Technology	
Examiner: Mrs C. Nash	Date: 2022-06-09
Moderator: Mr J. Nash	Time Allocation: 1hour 45min
	TOTAL 60
INSTRUCTIONS 1. Read all the instructions and questions carefully. 2. Write neatly and legibly. 3. Write in full sentences unless otherwise instructed. 4. Look carefully at the mark allocation when giving your answers. 5. Answer in the spaces provided. 6. This paper consists of 7 pages.	Parent's signature: _____ Comments: _____ _____ _____ _____ _____

1	2	3	4	5	6	7
0 – 29%	30 – 39%	40 – 49%	50 – 59%	60 – 69%	70 – 79%	80 – 100%

Question	1	2	3	4	5	6	7	8	9	10	11	**Total**	**%**
Allocated mark	**8**	**4**	**6**	**10**	**6**	**4**	**4**	**6**	**3**	**5**	**4**	**60**	
Learner's mark													
Moderated mark													

Question 1:
Multiple choice questions: **(6)**

Choose one correct answer from the four options provided.
Circle the correct letter.

1.1 Natural materials come from…
A. sand.
B. paper.
C. materials.
D. plants, animals and the earth.

1.2 Raw materials are materials that have not been…
A. processed.
B. changed.
C. manufactured.
D. reinforced.

1.3 Some of the traditional homes in Africa are made of…
A. clay.
B. mud.
C. cement.
D. clay and mud.

BEDFORDVIEW PRIMARY

1.4 We make materials stronger by adding other materials together, we say we are … it.

A. reinforcing
B. fixing
C. painting
D. plastering

1.5 Which of the following objects do not fit into the group below.

A. Cotton
B. Copper
C. Wood
D. Porcelain

1.6 The surface of a metal is …… if it is clean.

A. Dented
B. Lustrous
C. Rough
D. Dull

1.7 Cement is a powdered mixture of …… clay and gypsum.

A. Small stones
B. Water
C. Limestone
D. Straw

1.8 Materials are processed to make …… products.

A. New
B. Stronger
C. Stable
D. Old

Question 2:

True and false **(4)**

Decide whether the following statements are true or false.
If It is False, change the statement to be true.

2.1 All metals are liquid at room temperature, except for mercury, which is a solid. False
Mercury is a metal that is in liquid form

2.2 Aluminium is a metal with properties that is similar to paper. True

2.3 Non-metals are very strong. They can be hammered without breaking. False
Non-metals are brittle and will break when hammered.

2.4 Metals such as copper, aluminium and gold are good conductors of heat. True

BEDFORDVIEW PRIMARY

Question 3:

Tabulate: **(6)**

Use the following Properties listed below and place them in the correct column.

- Shiny or silvery
- Cold to touch
- Plasticity
- Dull and brittle
- Not cold or hot
- Malleable and ductile

METALS	NON – METALS
3.1 Shiny or silvery	Plasticity
3.2 Cold to the touch	Dull and brittle
3.3 Malleable and ductile	Not cold or hot

Question 4:

Vocabulary: **(10)**

Match the words in Column A with the correct meaning in Column B

	Word	Definition
4.1	Waterproof	a. Material made from yarn or fibres by weaving or knitting
4.2	Property	b. A material that is not easily damaged by fire
4.3	Strong	c. Characteristics or feature of a material that enables it to perform a specific function
4.4	Stitching	d. Materials made from sand or clay
4.5	Processed material	e. Something that will last for a long time
4.6	Weaving	f. A material that has been changed in someway
4.7	Durable	g. Using thread to sew or join two materials together
4.8	Ceramics	h. To make something by crossing strips or threads under and over each other
4.9	Fire-resistant	i. A material that is not easily broken
4.10	Fabric	j. Will not let water pass through

4.1 J 4.2 C 4.3 i 4.4 G 4.5 F

4.6 H 4.7 E 4.8 D 4.9 B 4.10 A

BEDFORDVIEW PRIMARY

Question 5:
Picture Interpretation: **(6)**

Study the picture and complete the table below.

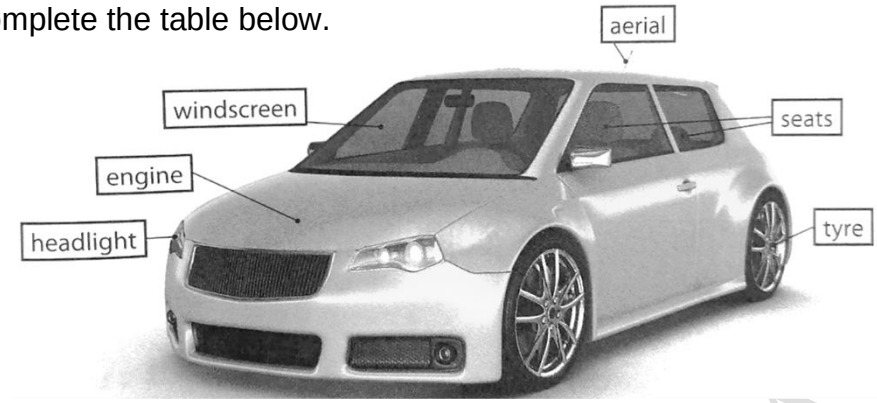

For each item on the car, write down what material it is made of and whether it is a metal or non-metal.

	Item	Material used	Metal or non-metal
Example:	***Number plate***	***Plastic***	***Non-Metal***
5.1	Headlights	Plastic	Non-metal
5.2	Engine	Steel	Metal
5.3	Windscreen	Glass	Non-metal
5.4	Aerial	Steel	Metal
5.5	Seats	Material	Non-metal
5.6	Tyre	Rubber	Non-metal

Question 6:
Data interpretation: **(4)**

Study the table carefully, which shows the properties of metals and answer the questions below.

Item	Metal	Strength	Contains Iron	Malleable	Weight of Metal
Door handle	Brass	Fairly strong	No and wont rust	Shapes very easily in factories	Heavy
Spade	Steel	Very strong	Yes will rust	Hard to shape	Fairly heavy
Window frame	Aluminium	Very strong	No and wont rust	Hard to shape	Light
Teaspoon	Stainless steel	Fairly strong	A little	Fairly easy to shape	Fairly light

6.1 Suggest why the teaspoon will not rust. **/1**
The teaspoon is made of stainless steel and therefore wont rust

6.2 Explain why a gardener would want his spade to be made of out steel? **/1**
Steel is very strong and won't break.
Steel is durable

6.3 Why do factories make door handles from brass? **/1**
It is fairly strong, wont rust and is easy to shape.

6.4 Suggest why it is better to make window frames out of aluminium and not steel? **/1**
Aluminium is light in weight and won't rust

BEDFORDVIEW PRIMARY

Question 7:

Predict what the answer would be by filling in the missing words **(4)**
Use the words in the word bank and complete the sentences below.

air, water, salt water

7.1 Iron rusts when it comes into contact with air **/1**

7.2 Iron will rust more quickly in salt water than in water **/2**

7.3 How can we prevent iron from rusting? **/1**

We can paint the iron with an antirust paint or grease it with an oil

Question 8:
Definitions **(6)**

8.1 What does the word 'property' mean? **/1**
A quality or feature of an object that never changes.

8.2 Describe the follow properties and say whether they apply to **metal or non-metals.**


dull

Not shiny
Lacks lustre


conductors

Materials that let heat or electricity pass through it

ductile

Able to be drawn out into wire

BEDFORDVIEW PRIMARY



brittle

Able to break easily

Fragile



hard and strong

Won't break easily and is durable

Question 9:

A property or reaction **(5)**

State which property or reaction of the metal is being applied

Rust	Magnetic	Conducts Heat

9.1

Conducts Heat

9.2 

Rust

9.3 

Magnetic

BEDFORDVIEW PRIMARY

Question 10:
Select the correct answer **(5)**

Four options are given of different ways in which substances can be processed.
Write down the processing method that fits in the column.

- Mix and set
- Mix and heat
- Mix and cool
- Mix, dry and/or fire
- Mix

	Description	**Processing Method**
10.1	Plaster of paris and water	Mix and set
10.2	Sand, gravel, cement and water = concrete	Mix and set
10.3	Clay bricks	Mix, dry and/or fire
10.4	Ceramic plates and mugs	Mix and heat
10.5	Jelly	Mix and cool

Question 11:
Interpretation **(4)**

Study the flow diagram and answer the questions that follow

11.1 What raw materials are being used?
Flour and water.

11.2 What process took place?
Mixing is the process that took place

11.3 Which product is created?
Glue is created

11.4 What can the end product be used for?
Arts and crafts. Gluing and sticking paper together

BEDFORDVIEW PRIMARY