Bedfordview Primary School
TERM 2 TEST

Name:	Grade 5 : __
Subject: Natural Science and Technology	
Examiner: Mrs C. Nash	Date: 2022-06-09
Moderator: Mr J. Nash	Time Allocation: 1hour 45min
	TOTAL 60
INSTRUCTIONS 1. Read all the instructions and questions carefully. 2. Write neatly and legibly. 3. Write in full sentences unless otherwise instructed. 4. Look carefully at the mark allocation when giving your answers. 5. Answer in the spaces provided. 6. This paper consists of 7 pages.	Parent's signature: _____ Comments: _____ _____ _____ _____ _____

1	2	3	4	5	6	7
0 – 29%	30 – 39%	40 – 49%	50 – 59%	60 – 69%	70 – 79%	80 – 100%

Question	1	2	3	4	5	6	7	8	9	10	11	**Total**	**%**
Allocated mark	**8**	**4**	**6**	**10**	**6**	**4**	**4**	**6**	**3**	**5**	**4**	**60**	
Learner's mark													
Moderated mark													

Question 1:
Multiple choice questions: **(8)**

Choose one correct answer from the four options provided.
Circle the correct letter.

1.1 Natural materials come from…
A. sand.
B. paper.
C. materials.
D. plants, animals and the earth.

1.2 Raw materials are materials that have not been…
A. processed.
B. changed.
C. manufactured.
D. reinforced.

1.3 Some of the traditional homes in Africa are made of…
A. clay.
B. mud.
C. cement.
D. clay and mud.

BEDFORDVIEW PRIMARY

1.4 We make materials stronger by adding other materials together, we say we are … it.

A. reinforcing
B. fixing
C. painting
D. plastering

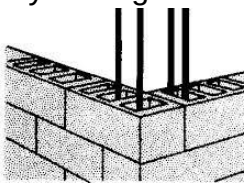

1.5 Which of the following objects **do not** fit into the group below.

A. Cotton
B. Copper
C. Wood
D. Porcelain

1.6 The surface of a metal is …… if it is clean.

A. Dented
B. Lustrous
C. Rough
D. Dull

1.7 Cement is a powdered mixture of …… clay and gypsum.

A. Small stones
B. Water
C. Limestone
D. Straw

1.8 Materials are processed to make …… products.

A. New
B. Versatile
C. Lustrous
D. Old

Question 2:

True and false **(4)**

Decide whether the following statements are true or false.
If It is False, change the statement to be true.

2.1 All metals are liquid at room temperature, except for mercury, which is a solid. _____

_____

2.2 Aluminium is a metal with properties that is similar to paper. _____

_____

2.3 Non-metals are very strong. They can be hammered without breaking. _____

_____

2.4 Metals such as copper, aluminium and gold are good conductors of heat. _____

_____

BEDFORDVIEW PRIMARY

Question 3:

Tabulate: **(6)**

Use the following Properties listed below and place them in the correct column.

- Reflective or silvery
- Cold to touch
- Plasticity
- Dull and brittle
- Not cold or hot
- Malleable and ductile



METALS	NON – METALS
3.1	
3.2	
3.3	

Question 4:

Vocabulary: **(10)**

Match the words in Column A with the correct meaning in Column B

	Word	Definition
4.1	Waterproof	a. Material made from yarn or fibres by weaving or knitting
4.2	Property	b. A material that is not easily damaged by fire
4.3	Strong	c. Characteristics or feature of a material that enables it to perform a specific function
4.4	Stitching	d. Materials made from sand or clay
4.5	Processed material	e. Something that will last for a long time
4.6	Weaving	f. A material that has been changed in someway
4.7	Durable	g. Using thread to sew or join two materials together
4.8	Ceramics	h. To make something by crossing strips or threads under and over each other
4.9	Fire-resistant	i. A material that is not easily broken
4.10	Fabric	j. Will not let water pass through

4.1 _____ 4.2 _____ 4.3 _____ 4.4 _____ 4.5 _____

4.6 _____ 4.7 _____ 4.8 _____ 4.9 _____ 4.10 _____

BEDFORDVIEW PRIMARY

Question 5:

Picture Interpretation: **(6)**

Study the picture and complete the table below.

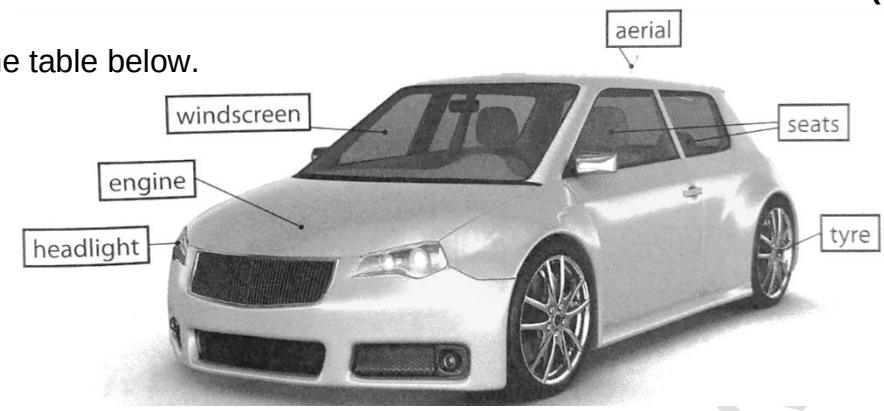

For each item on the car, write down what material it is made of and whether it is a metal or non-metal.

	Item	Material used	Metal or non-metal
Example:	***Number plate***	***Plastic***	***Non-Metal***
5.1	Headlights		
5.2	Engine		
5.3	Windscreen		
5.4	Aerial		
5.5	Seats		
5.6	Tyres		

Question 6:

Data interpretation: **(4)**

Study the table carefully, which shows the properties of metals and answer the questions below.

Item	Metal	Strength	Contains Iron	Malleable	Weight of Metal
Door handle	Brass	Fairly strong	No and wont rust	Shapes very easily in factories	Heavy
Spade	Steel	Very strong	Yes will rust	Hard to shape	Fairly heavy
Window frame	Aluminium	Very strong	No and wont rust	Hard to shape	Light
Teaspoon	Stainless steel	Fairly strong	A little	Fairly easy to shape	Fairly light

6.1 Suggest why the teaspoon will not rust. **/1**

_____

6.2 Explain why a gardener would want his spade to be made of out steel? **/1**

_____

6.3 Why do factories make door handles from brass? **/1**

_____

_____

6.4 Suggest why it is better to make window frames out of aluminium and not steel? **/1**

_____

_____

BEDFORDVIEW PRIMARY

Question 7:

Predict what the answer would be by filling in the missing words **(4)**
Use the words in the word bank and complete the sentences below.

air, water, salt water

7.1 Iron rusts when it comes into contact with _____ **/1**

7.2 Iron will rust more quickly in _____ than in _____. **/2**

7.3 How can we prevent iron from rusting? Answer in a full sentence. **/1**

_____

_____

Question 8:
Definitions **(6)**

8.1 What does the word 'property' mean? **/1**

_____

_____

8.2 **Describe** the follow properties in full sentences. **(5)**

4.1



dull

_____

_____

_____



conductors

_____

_____

_____

ductile

_____

_____

_____

DVIEW PRIMARY



brittle

_____

_____

_____

hard and strong

_____

_____

_____

Question 9:

A property or reaction **(3)**

State which property or reaction of the metal is being applied

Rust	Magnetic	Conducts Heat

9.1 _____



9.2 _____



9.3 _____

BEDFORDVIEW PRIMARY

Question 10:
Select the correct answer **(5)**

Four options are given of different ways in which substances can be processed.
Write down the processing method that fits in the columns below.

- Mix and set
- Mix and heat
- Mix and cool
- Mix, dry and/or fire
- Mix

	Description	**Processing Method**
10.1	Plaster of paris and water	
10.2	Sand, gravel, cement and water = concrete	
10.3	Clay bricks	
10.4	Ceramic plates and mugs	
10.5	Jelly	

Question 11:
Interpretation **(4)**

Study the flow diagram and answer the questions that follow

Flour + Water → Mixing → Glue

11.1 What raw materials are being used?

_____

11.2 What process took place?

_____

11.3 Which product is created?

_____

11.4 What can the end product be used for?

_____

BEDFORDVIEW PRIMARY